Year 3 Maths Assessment

Statistics and Probability

1. Conduct chance experiments, identify and describe possible outcomes and recognise variation in results (ACMSP067)
2. Identify questions or issues for categorical variables. Identify data sources and plan methods of data collection and recording (ACMSP068)
3. Collect data, organise into categories and create displays using lists, tables, picture graphs and simple column graphs, with and without the use of digital technologies (ACMSP069)
4. Interpret and compare data displays (ACMSP070)

Statistics and Probability	Year 3 Maths Asessment
Name:	Date:

Total Marks 20

1 Look at the following box of marbles and answer the questions.

a) How many marbles are blue? _____ out of _____

b) How many marbles are yellow? _____ out of _____

c) How many marbles are red and purple? _____ out of _____

d) What marble has the most chance of being pulled out of the box? _____

e) What marble has the least chance of being pulled out of the box? _____

5 marks

2 Have a look at these fruit and vegetables and help organise them by colour by ticking the boxes for each.



green	yellow	red	orange
☐	☐	☐	☐
☐	☐	☐	☐
☐	☐	☐	☐
☐	☐	☐	☐
☐	☐	☐	☐

3 marks

Page Total

visit twinkl.com.au

3 A survey was conducted to find out the class' favourite animals. Here are the results.

Shark: 4	Lion: 5
Kangaroo: 6	Parrot: 1
Penguin: 2	Crocodile: 3
Koala: 4	Platypus: 8

a) How many people were asked their favourite animal?

b) What is the most popular animal?

c) What is the least popular animal?

d) Draw out a tally chart to show the data collected.

5 marks

Page Total

visit twinkl.com.au

4 Use the favourite animal data to draw out a bar chart to show the results.



5 marks

5 Write an appropriate title for this bar chart - what was the survey asking?

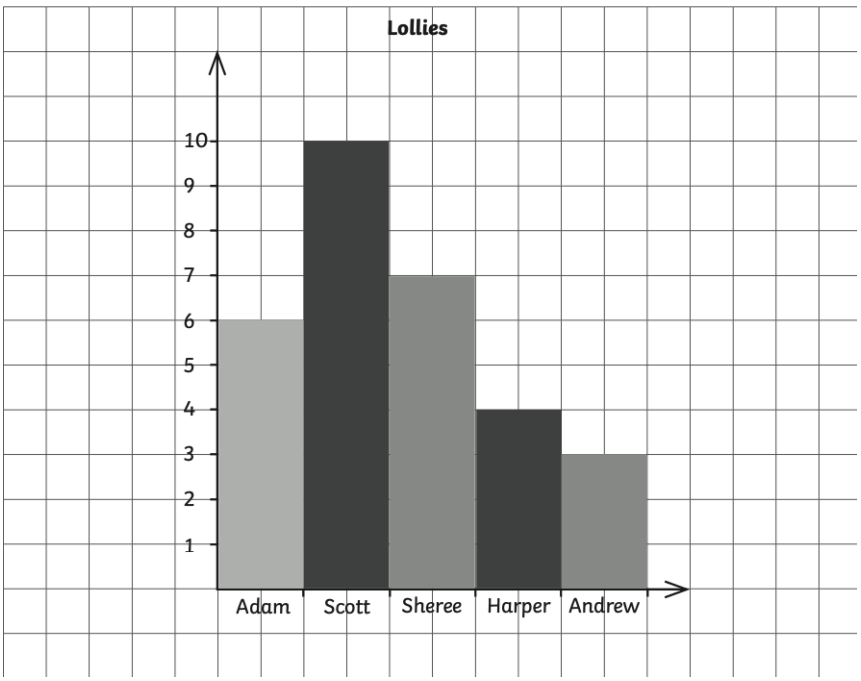

Title: _____

2 marks

visit twinkl.com.au

Page Total

Mark Scheme

<table>
<tr><th>Question</th><th>Answer</th><th>Marks</th><th>Notes</th></tr>
<tr><td>1</td><td>a) 5 out of 20
b) 2 out of 20
c) 7 out of 20
d) Purple
e) Red</td><td>5</td><td>1 mark for each correct question.</td></tr>
<tr><td>2</td><td><table><tr><th>green</th><th>yellow</th><th>red</th><th>orange</th></tr><tr><td>☑</td><td>☑</td><td>☑</td><td>☑</td></tr><tr><td>☑</td><td>☐</td><td>☑</td><td>☑</td></tr><tr><td>☑</td><td>☐</td><td>☑</td><td>☐</td></tr><tr><td>☑</td><td>☐</td><td>☐</td><td>☐</td></tr><tr><td>☐</td><td>☐</td><td>☐</td><td>☐</td></tr></table></td><td>3</td><td>Award 3 marks for all columns correctly ticked, 2 for 2 or 3 columns correctly and 1 for 1 column.</td></tr>
<tr><td>3</td><td>a) 33
b) Platypus
c) Parrot
d)<table><tr><th>Animals</th><th>Tally</th><th>Total</th></tr><tr><td>Shark</td><td>||||</td><td>4</td></tr><tr><td>Kangaroo</td><td>~~||||~~|</td><td>6</td></tr><tr><td>Penguin</td><td>||</td><td>2</td></tr><tr><td>Koala</td><td>||||</td><td>4</td></tr><tr><td>Lion</td><td>~~||||~~</td><td>5</td></tr><tr><td>Parrot</td><td>|</td><td>1</td></tr><tr><td>Crocodile</td><td>|||</td><td>3</td></tr><tr><td>Platypus</td><td>~~||||~~|||</td><td>8</td></tr></table></td><td>5</td><td>1 mark for each of the questions correctly. 2 marks for a correctly drawn tally chart.</td></tr>
</table>

visit twinkl.com.au

Mark Scheme

4	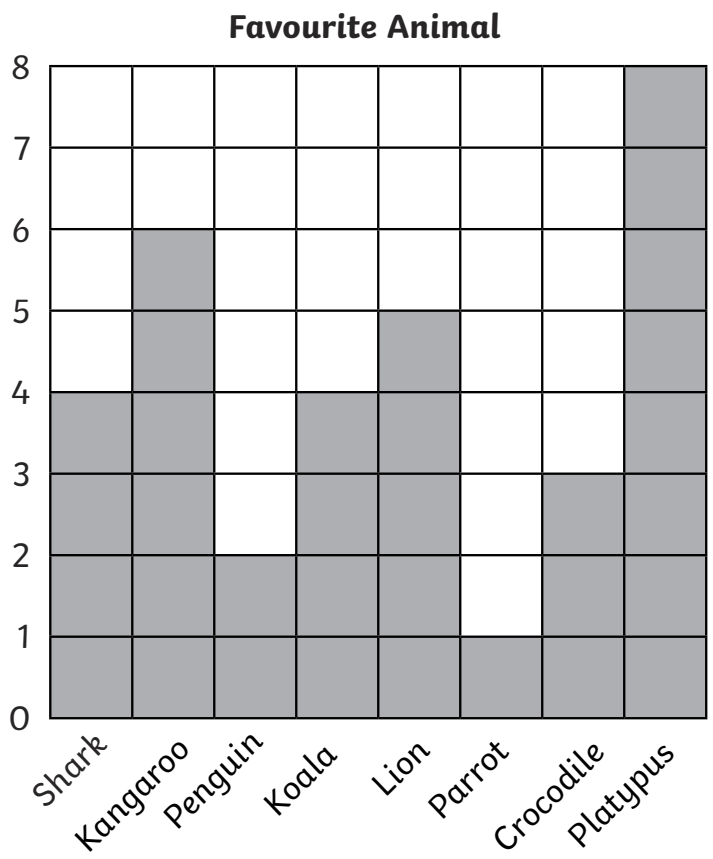	**5**	5 marks for a correcly drawn and neat bar chart, less marks awarded if elements missing or ruler not used.
5	**A bar chart to show how many lollies each person has - or something similar to this.**	**2**	Marks given for appropriate title.
	Total Marks	**/20**	

visit twinkl.com.au