Year 3 Maths Assessment

Measurement and Geometry 2

1. Measure, order and compare objects using familiar metric units of length, mass and capacity (ACMMG061)
2. Tell time to the minute and investigate the relationship between units of time (ACMMG062)
3. Create and interpret simple grid maps to show position and pathways (ACMMG065)

Geometry and Measurment 2 | Year 3 Maths Asessment

Name: | Date:

Total Marks **20**

1 Label the compass points correctly.

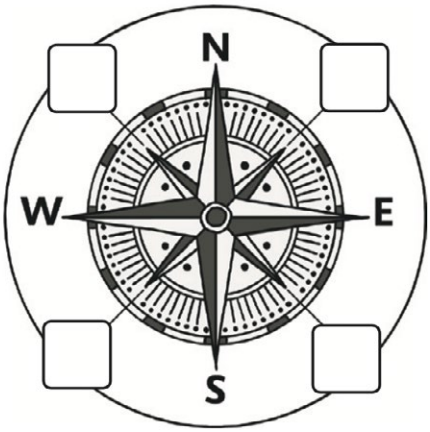

1 mark

2 Have a look at the map and follow the compass directions

a) From the start go 3 spaces north and 1 space west. Where are you?

b) From the start go 4 spaces north and 3 spaces east. Where are you?

c) From the theme park go 4 spaces east and 2 spaces north. Where are you?

d) From the police station what is north east?

4 marks

Page Total

visit twinkl.com.au

3 Write the measurements shown on the ruler in centimetres

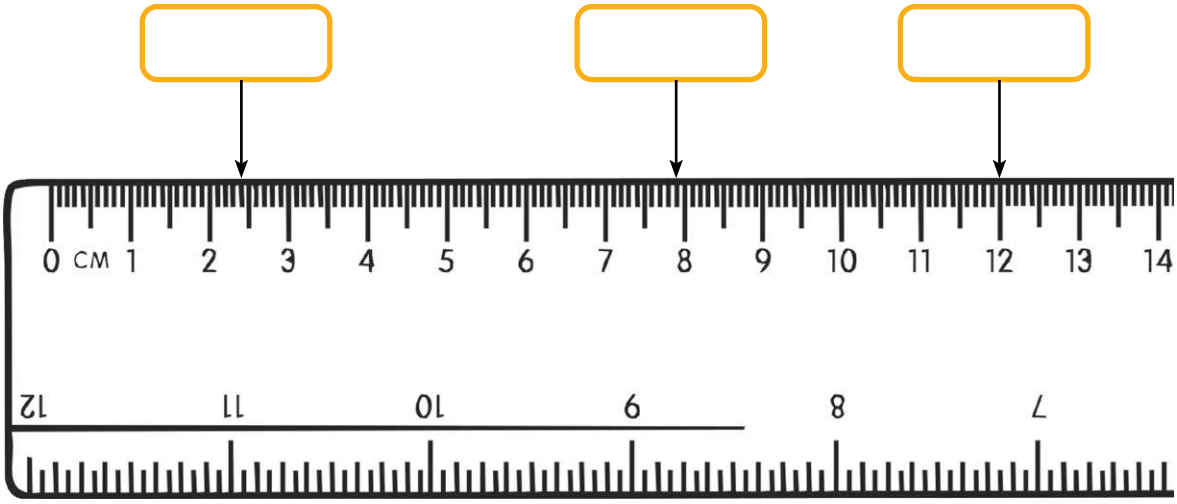

3 marks

4 Look at the clocks below and write down the digital times in the boxes.



3 marks

5 Look at the scales and record the mass of each in grams.

a)

b)



c)

3 marks

visit twinkl.com.au

Page Total

6 Draw a 1 litre drink bottle.

a) Label where you think 500ml would be.

b) Label where you think 250ml would be.

2 mark

7 Convert these measurements:

a) 1m = _____ cm

b) 3.5m = _____ cm

c) 250cm = _____ m

d) 150cm = _____ mm

4 marks

visit twinkl.com.au

Page Total

Geometry and Measurment 2 — Year 3 Maths Asessment

Mark Scheme

Question	Answer	Marks	Notes
1	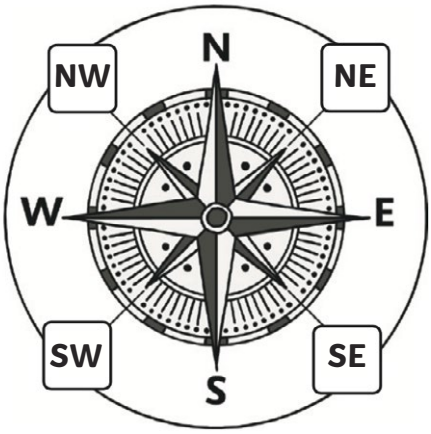	1	1 mark for all correct compass points.
2	a) Toy shop b) Cafe c) Airport d) Vet	4	1 mark for each correct.
3	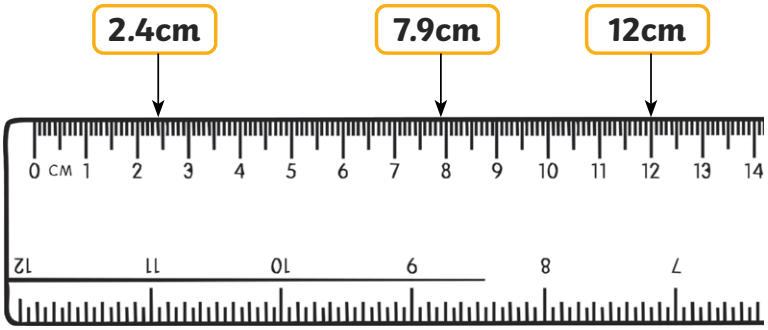	3	1 mark for each correct.
4		3	1 mark for each correct.

visit twinkl.com.au

Mark Scheme

5	a)  b) c) 500g 250g 1kg	3	1 mark for each correct.
6	**Teacher to check drawing and labels at 500ml and 250ml at the appropriate place.**	2	1 mark for each correct label.
7	**a) 1m = 100cm** **b) 3.5m = 350cm** **c) 250cm = 2.5m** **d) 150cm = 1500mm**	4	1 mark for each correct.
	Total Marks	**/20**	

visit twinkl.com.au